ABRSM 樂理 Grade 1 模擬考試卷

考試時間：1.5 小時 ｜ 總分：75 分 ｜ 及格：50 分 ｜ 優秀：65 分

本模擬考試卷比照 ABRSM Grade 1 官方 Sample Paper
結構（七大區塊）。所有題目內附譜例。請依題目指示作答（圈選、勾選、填寫）。

Terminology（術語對照）

英式	美式	中文
semibreve	whole note	全音符
minim	half note	二分音符
crotchet	quarter note	四分音符
quaver	eighth note	八分音符
semiquaver	sixteenth note	十六分音符

1 Rhythm（節奏） ／15

1.1 請圈出每小節正確的拍號。（3 分）

(a)		2/4 4/4 3/4
(b)		3/4 4/4 2/4
(c)		C 2/4 3/4

1.2 請在每段旋律中加入一條遺漏的小節線。（5 分）



譜例 1-1 (a) 2/4 拍



譜例 1-2 (b) D 大調 3/4 拍



譜例 1-3 (c) 4/4 拍

1.3 請勾選一格回答以下問題。（2 分）

(a) 一個附點二分音符等於幾個八分音符？	3　4　5　6
(b) 一個全音符（semibreve）等於幾個四分音符？	2　3　4　6

1.4 請勾選分組正確的小節。（1 分）

		

1.5 請勾選　或　以表示休止符是否正確。（3 分）



譜例 1-4 請判斷三個休止符（每小節各一）的正確性

小節 1：　小節 2：　小節 3：

1.6 請勾選一格，顯示四個音符由短到長的正確順序。（1 分）

				
				
				

2 Pitch（音高） ／15

2.1 請勾選每個音的正確音名。（7 分）

(a)		F♯ D♯ G E
(b)		A B F G
(c)		E♯ C♯ D♯ G♯
(d)		G F B A
(e)		E♭ B♭ D♭ A♭
(f)		F G C D
(g)		D E G F

2.2 請勾選每對音中較低的音。（4 分）

(a)		
(b)		
(c)		
(d)		

2.3 請勾選需要使用的正確譜號。（4 分）

(a) G	Treble Bass
(b) E（高音）	Treble Bass
(c) C（中央 C）	Treble Bass
(d) B♭（低音域）	Treble Bass

3 Keys and Scales（調與音階） ／15

3.1 請勾選 F 大調正確的調號。（1 分）

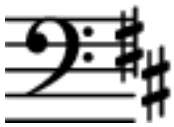			

3.2 請勾選 D 大調正確的調號。（1 分）

			

3.3 請勾選三格，標示需要加上臨時記號的音符（G 大調）。（3 分）



譜例 1-5 G 大調旋律：找出三個 F 應為 F♯ 的位置

3.4 請勾選兩格，標示音階中相距半音的兩對音。（2 分）



譜例 1-6 C 大調音階：哪兩對音相距半音？（提示：E-F 與 B-C）

3.5 請圈出 TRUE 或 FALSE。（4 分）

(a) F 大調的調號是一個降號	TRUE FALSE
(b) D 大調的調號是一個升號	TRUE FALSE
(c) 以下音是 G 大調的第 2 音	TRUE FALSE
	（題 c 譜面）
(d) 以下音是 F 大調的第 4 音	TRUE FALSE
	（題 d 譜面）

3.6 請勾選 G 大調正確上行的音階。（1 分）

譜例 1-7 (a)

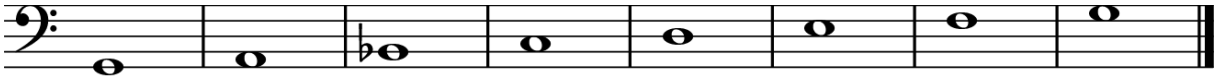

譜例 1-8 (b)

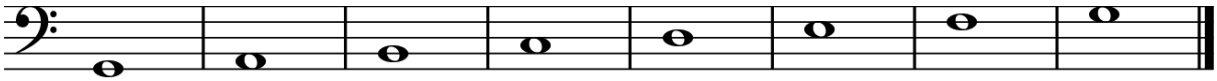

譜例 1-9 (c)

3.7 以下音階是「C 大調，下行」嗎？圈出 TRUE 或 FALSE。（1 分）

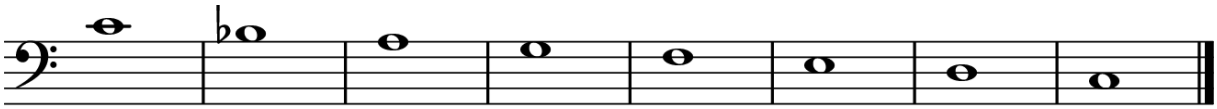

譜例 1-10 TRUE FALSE（提示：自然 C 大調下行不該有 B♭）

3.8 以下是 D 大調下行。請勾選兩個錯誤的音。（2 分）



譜例 1-11 D 大調下行：哪兩個音應為升號（提示：F 應為 F♯）

4 Intervals（音程） ／10

4.1 請依指定度數，在每個範例上方寫出較高的音。調號為 D 大調。（5 分）

(a) 4 度	
(b) 2 度	
(c) 8 度（octave）	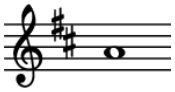
(d) 5 度	
(e) 6 度	

4.2 請勾選每個音程的正確度數。調號為 C 大調。（5 分）

(a)		1st　2nd　3rd　4th
(b)		1st　2nd　7th　8th
(c)		2nd　4th　5th　6th
(d)		4th　5th　6th　7th
(e)		5th　6th　7th　8th

5 Tonic Triads（主三和弦） ／10

5.1 請圈出 TRUE 或 FALSE。（3 分）

(a)		這是 G 大調的主三和弦	TRUE FALSE
(b)		這是 F 大調的主三和弦	TRUE FALSE
(c)		這是 D 大調的主三和弦	TRUE FALSE

5.2

請補上一個遺漏的音以完成每個主三和弦，主音為最低音。如有需要請加臨時記號。（3 分）

(a) F 大調	
(b) D 大調	
(c) C 大調	

5.3 請圈出每個主三和弦的正確調。（4 分）

(a)		F major ／ C major ／ G major ／ D major
(b)	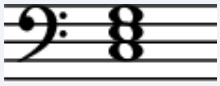	C major ／ F major ／ D major ／ G major
(c)		G major ／ D major ／ C major ／ F major
(d)		C major ／ D major ／ F major ／ G major

6 Terms and Signs（術語與記號） ／5

請為每個術語／記號勾選一格。（5 分）

staccato 的意思是：	重音　相當快　大聲　斷奏（detached）
decrescendo 的意思是：	漸強　漸快　漸弱　漸慢
Adagio 的意思是：	慢板　快板　中等速度　相當快
mp 的意思是：	中等強　中等弱　非常輕　輕
= 120 的意思是：	120 個四分音符　一小節 120 拍　一分鐘 120 個四分音符　旋律中有 120 個四分音符

7 Music in Context（樂曲分析） ／5

請看以下旋律，回答後面的問題。



譜例 1-12 8 小節 C 大調旋律（請仔細閱讀後回答下列問題）

7.1 請圈出 TRUE 或 FALSE。（1 分）

這段旋律在結尾逐漸變強。 TRUE ／ FALSE

7.2 哪一小節包含 C 大調主三和弦的全部三個音？（1 分）

第 1 小節　第 2 小節　第 5 小節　第 6 小節

7.3 請勾選一格回答以下三個問題。（3 分）

(a) 旋律中最長的音符是：	minim　semibreve　crotchet　dotted minim
(b) 第 1 小節的音高與哪一小節相同？	第 4 小節　第 5 小節　第 7 小節　第 8 小節
(c) 旋律中最高的音名是：	A　F　B　G

—— 試卷結束 ——

總分：75 分 ｜ 及格：50 分 ｜ 優秀：65 分