ABRSM 樂理 Grade 3 模擬考試卷

考試時間：1.5 小時 ｜ 總分：75 分 ｜ 及格：50 分

比照 ABRSM Grade 3 官方 Sample Paper 結構（七大區塊）。所有題目附譜例。

---

1 Rhythm（節奏） ／15

1.1 請圈出每小節正確的拍號。（3 分）

(a)		4/4 12/8 6/8
(b)		9/8 3/4 6/8
(c)		4/4 12/8 3/4

1.2 請在每段旋律加入一條遺漏的小節線。（4 分）



譜例 3-1 (a) G 大調 6/8 拍



譜例 3-2 (b) F 大調 9/8 拍



譜例 3-3 (c) A 大調 4/4 拍（含三連音）



譜例 3-4 (d) E♭ 大調 12/8 拍

1.3 請完成下列句子。（2 分）

(a) 一個三連音中，3 個八分音符等於 _____ 個正常八分音符的時值。

(b) 6/8 拍的大拍是 _____ 拍。

1.4 請勾選正確的拍子類型。（3 分）

(a) 6/8	雙拍子（duple）　三拍子（triple）　四拍子（quadruple）
(b) 9/8	雙拍子　三拍子　四拍子
(c) 12/8	雙拍子　三拍子　四拍子

1.5 請勾選分組正確的小節（6/8 拍）。（1 分）

		

1.6 請勾選　或　以表示連結線（tie）vs 圓滑線（slur）使用是否正確。（2 分）



譜例 3-5 判斷：(1) c-c 連結線 (2) c-e-g 圓滑線

(1)　(2)

2 Pitch（音高） ／15

2.1 請寫出加線位置音符的音名。（5 分）

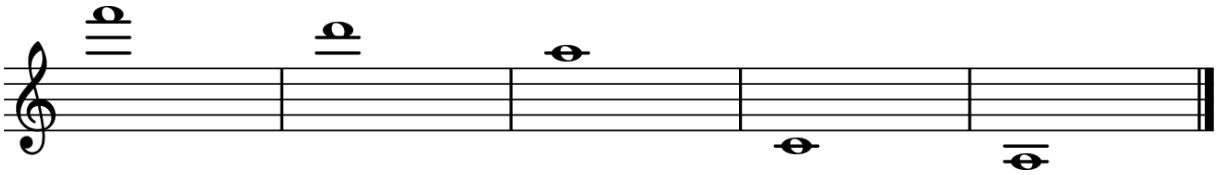

譜例 3-6 高音譜號：請寫出五個加線音符的音名

(1) ____ (2) ____ (3) ____ (4) ____ (5) ____

2.2 請寫出低音譜號上各音的音名。（4 分）

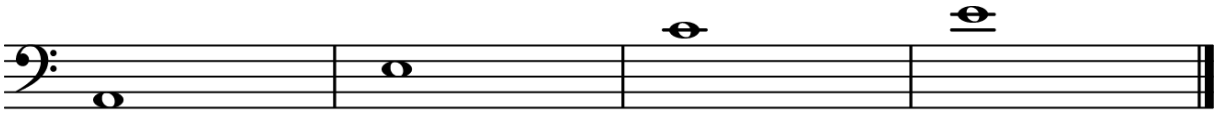

譜例 3-7 低音譜號：請寫出四個音的音名

(1) ____ (2) ____ (3) ____ (4) ____

2.3 請勾選 enharmonic 等效的音。（3 分）

(a) E♯ 等於：	E　F　F♯　D♯
(b) C♭ 等於：	B　C　C♯　D♭
(c) G♯ 等於：	A　A♭　G　F♯

2.4 請寫出下方音的音名（含調號的影響）。（3 分）

(a)		下方音 ＝ ____
(b)		下方音 ＝ ____
(c)		下方音 ＝ ____

3 Keys and Scales（調與音階） ／15

3.1 請勾選 E 大調正確的調號。（1 分）

			

3.2 請勾選 A♭ 大調正確的調號。（1 分）

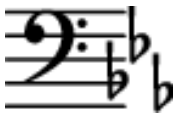	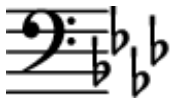		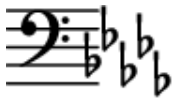

3.3 請辨認以下音階。（4 分）



譜例 3-8 (a) 上下行均含 D♯： E 自然小 E 和聲小 E 旋律小 G 大調



譜例 3-9 (b) 上行 B 、C♯；下行 B♭、C ： D 自然小 D 和聲小 D 旋律小 F 大調

3.4 請寫出 G 旋律小音階上行（從 G 開始）。（3 分）

G – ___ – ___ – ___ – ___ – ___ – ___ – G

（請寫出每個音名與升降號）

3.5 請圈出 TRUE 或 FALSE。（4 分）

(a) F♯ 小調的關係大調是 A 大調	TRUE FALSE
(b) C♯ 小調的調號是 4 個升號	TRUE FALSE
(c) 旋律小音階下行 ＝ 關係大調的下行	TRUE FALSE
(d) E♭ 大調的調號是 4 個降號	TRUE FALSE

3.6 請勾選 G 和聲小音階正確的上行寫法。（2 分）

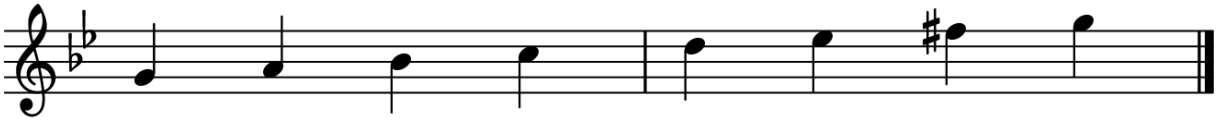

譜例 3-10 (a)

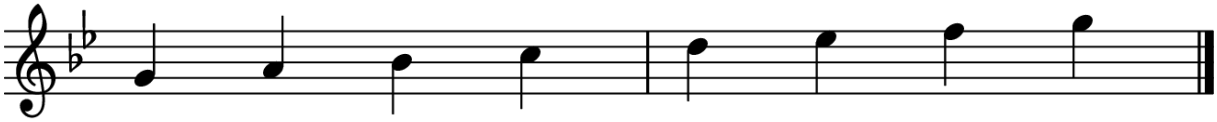

譜例 3-11 (b)　（提示：和聲小調的第 7 音必須升高）

4 Intervals（音程） ／15

4.1 請寫出每對音的度數與品質（major／minor／perfect）。（8 分）

調號為 D 大調。

(a)		_____
(b)		_____
(c)		_____
(d)		_____
(e)		_____
(f)		_____
(g)		_____
(h)		_____

4.2 請依指定的度數和品質，在較高位置加上音。（4 分）

(a) Perfect 5th	
(b) Major 3rd	
(c) Minor 3rd	
(d) Perfect 4th	

4.3 請辨認下列音程是melodic 還是 harmonic。（3 分）

(a)		Melodic　Harmonic
(b)		Melodic　Harmonic
(c)		Melodic　Harmonic

5 Tonic Triads（主三和弦） ／5

5.1 請圈出每個三和弦的正確調。（3 分）

(a)		A maj／E maj／C♯ min／F♯ min
(b)		B♭ maj／F maj／G min／D min
(c)		A♭ maj／E♭ maj／F min／C min

5.2 請補上遺漏的音以完成主三和弦（主音為最低音）。（2 分）

(a) E 大調	
(b) D 小調（自然）	

6 Terms and Signs（術語與記號） ／15

請為每個術語勾選正確意義。（共 15 分，每題 1 分）

(1) Largo	緩慢寬廣　快板　立即慢　漸快
(2) Andantino	行板稍快　緩慢　急板　中等
(3) Allegretto	稍快　漸慢　立即停　中等
(4) Vivace	活潑生動　哀怨　寬廣　莊嚴
(5) Adagio	慢板　行板　中庸　快板
(6) Lento	緩慢　急速　莊嚴　中等
(7) Moderato	中等速度　快　慢　變化
(8) Presto	非常快　中等　緩慢　立即慢
(9) Cantabile	如歌般　斷奏　圓滑　莊嚴
(10) Legato	圓滑　斷奏　重音　漸強
(11) Staccato	斷奏　圓滑　持續　加重音
(12) Sostenuto	持續　斷奏　漸弱　突強
(13) D.C. al Fine	從頭至 Fine　從記號處開始　結束　重複一次
(14) molto	非常　稍微　但是　不
(15) ritenuto (riten.)	立即放慢　漸慢　立即快　漸快

7 Music in Context（樂曲分析） ／5

請看以下旋律，回答後面的問題。



譜例 3-12 D 大調 6/8 拍 8 小節旋律（含弱起）

7.1 樂曲開頭是否有弱起小節（anacrusis）？

是　否（1 分）

7.2 以下旋律有幾個完整小節？

7　8　9　10（1 分）

7.3 樂曲開頭的速度／力度標記為何？

Andante, mp　Allegro, f　Largo, p　Vivace, mf（1 分）

7.4 最後一個音的音名為何？

A　D　F♯　E（1 分）

7.5 第 8 小節的力度變化是？

漸強到 f　漸弱到 mp　始終 ff　始終 p（1 分）

—— 試卷結束 ——

總分：75 分 ｜ 及格：50 分 ｜ 優秀：65 分